Задание 30. Установите соответствие между графиками функций и формулами, которые их задают.

1

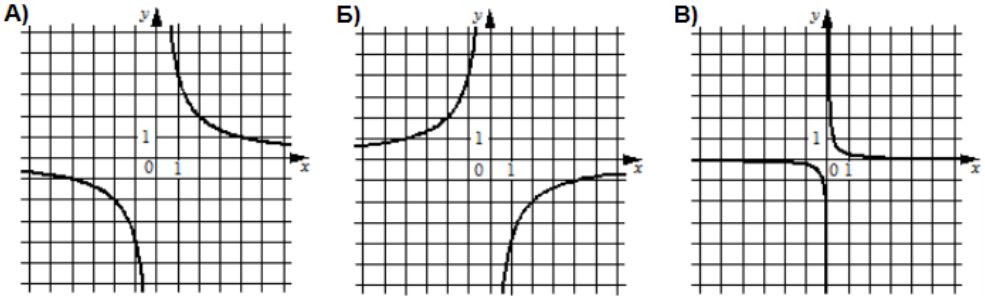

1) $y=-\frac{4}{x}$

2) $y=\frac{4}{x}$ 3) $y=\frac{1}{4x}$

А	Б	В

2

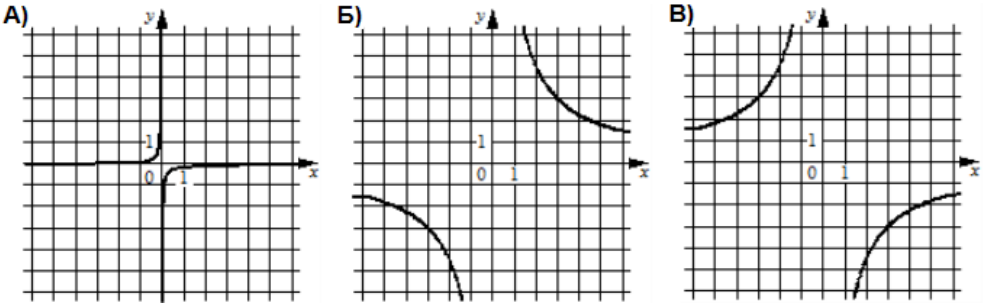

1) $y=\frac{9}{x}$ 2) $y=-\frac{9}{x}$

3) $y=-\frac{1}{9x}$

А	Б	В

3

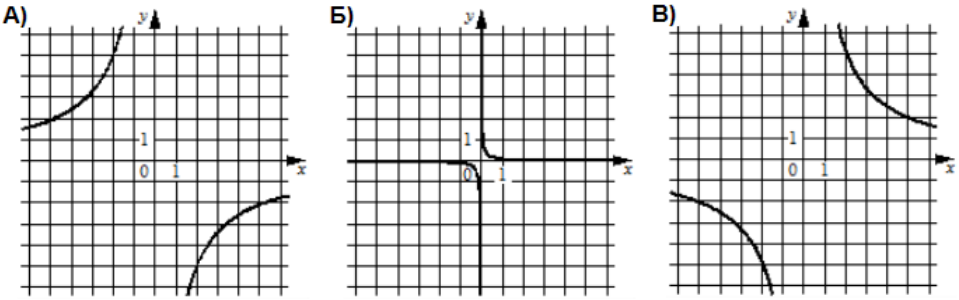

1) $y=\frac{10}{x}$ 2) $y=\frac{1}{10x}$

3) $y=-\frac{10}{x}$

А	Б	В

4

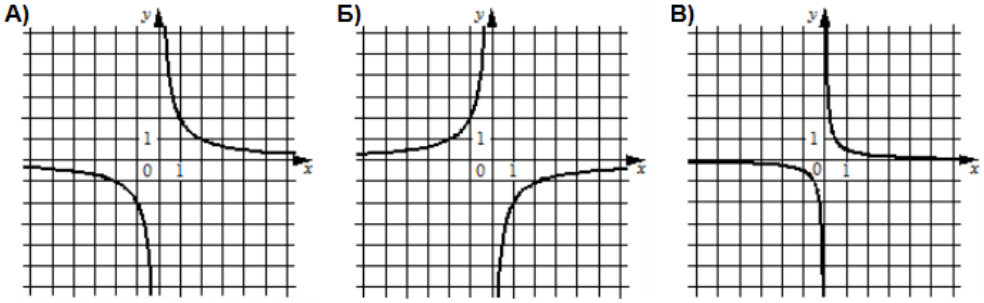

1) $y=\frac{2}{x}$ 2) $y=\frac{1}{2x}$

3) $y=-\frac{2}{x}$

А	Б	В

5

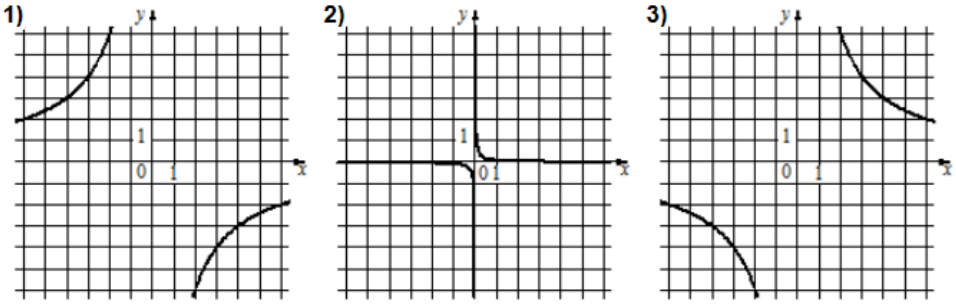

А) $y=-\frac{12}{x}$

Б) $y=\frac{1}{12x}$ В) $y=\frac{12}{x}$

А	Б	В

6

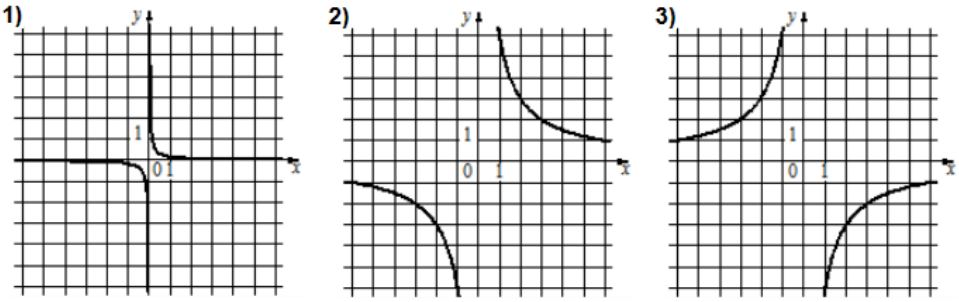

А) $y=\frac{1}{6x}$ Б) $y=-\frac{6}{x}$

В) $y=\frac{6}{x}$

А	Б	В