Задание 31. Установите соответствие между графиками функций и формулами, которые их задают.

1

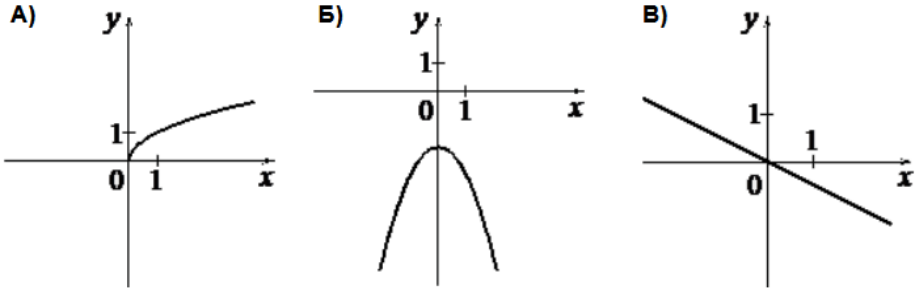

1) $y=-\frac{1}{2}x$ 2) $y=\sqrt{x}$
3) $y=-x^2-2$

А	Б	В

2

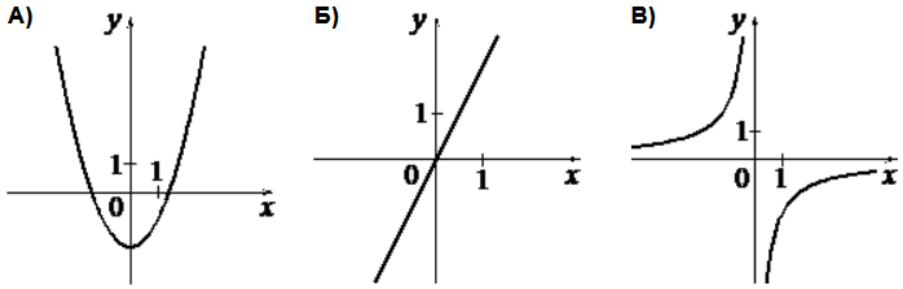

1) $y=-\frac{2}{x}$ 2) $y=2x$
3) $y=x^2-2$

А	Б	В

3

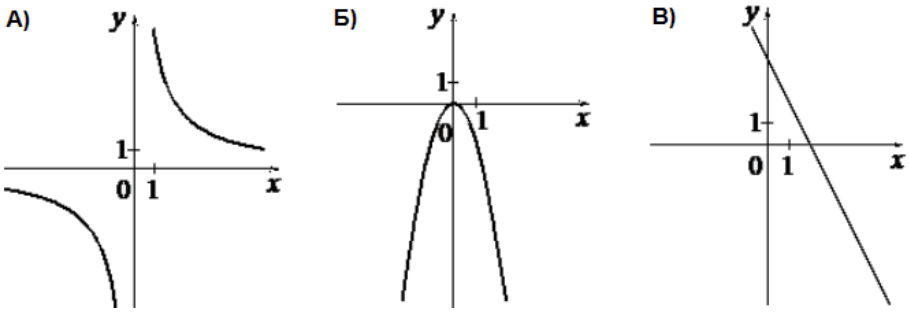

1) $y=\frac{6}{x}$ 2) $y=-2x+4$
3) $y=-2x^2$

А	Б	В

4

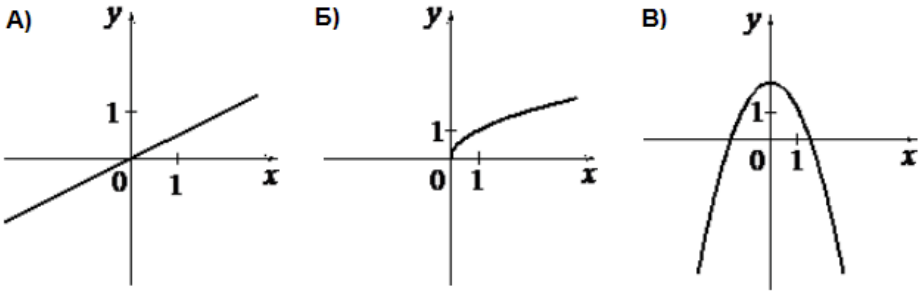

1) $y=\frac{1}{2}x$ 2) $y=2-x^2$
3) $y=\sqrt{x}$

А	Б	В

5

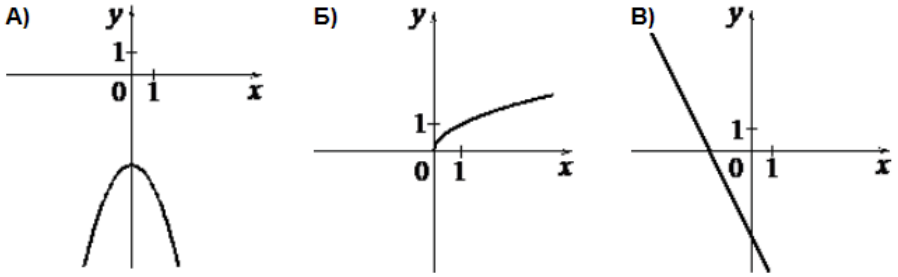

1) $y=-x^2-4$
2) $y=\sqrt{x}$
3) $y=-2x-4$

А	Б	В

6

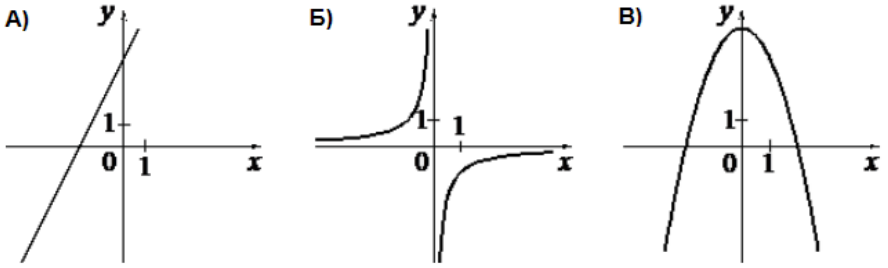

1) $y=-\frac{1}{x}$ 2) $y=4-x^2$
3) $y=2x+4$

А	Б	В